0580_s18_qp_33_Q2

2 **(a)** Draw all the lines of symmetry on each shape.



[4]

(b) The diagram shows an isosceles triangle and a straight line AB.

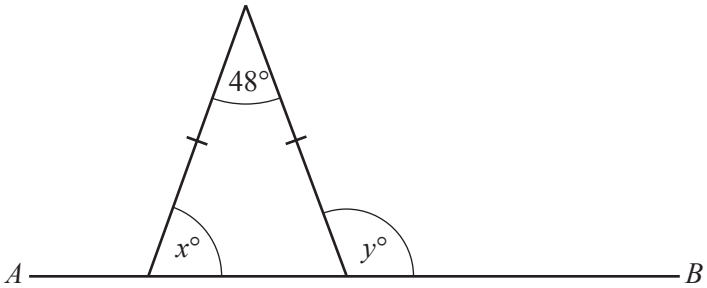

NOT TO SCALE

Find the value of x and the value of y.

x = ...

y = ... [2]

(c) Find the size of one interior angle of a regular decagon.

..... [3]

0580_s18_qp_33_Q2

(d)

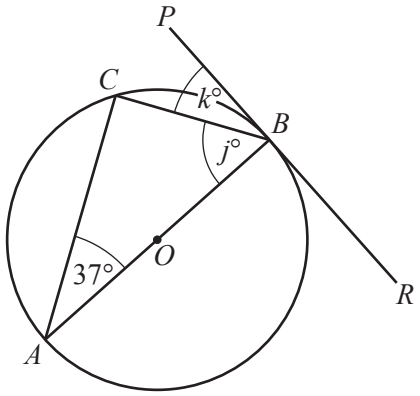

NOT TO SCALE

The points A, B and C lie on the circumference of a circle, centre O.
PBR is a tangent to the circle and angle $BAC = 37°$.

Find the value of j and the value of k.

$j =$ .....

$k =$ ..... [3]

(e)

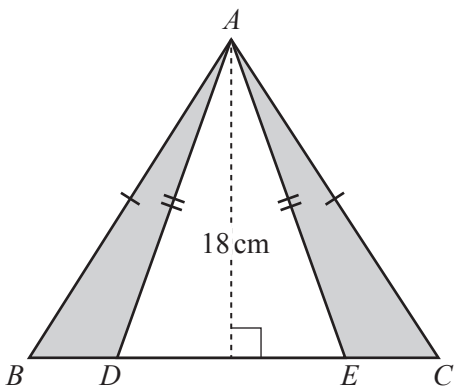

NOT TO SCALE

ABC and ADE are isosceles triangles, each with perpendicular height 18 cm.
$BC = 35$ cm and $DE = 27$ cm.

Find the total area of the two shaded parts of the diagram.

..... cm^2 [3]