0580_w18_qp_32_Q5

5 **(a)** Draw all the lines of symmetry on the rectangle below.

[2]

(b) Work out the size of one interior angle of a regular hexagon.

..... [3]

(c) The diagram shows a plan of a garden.

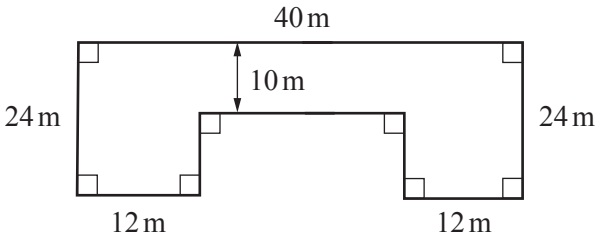

NOT TO SCALE

Work out the area of the garden.

..... m^2 [3]

(d)

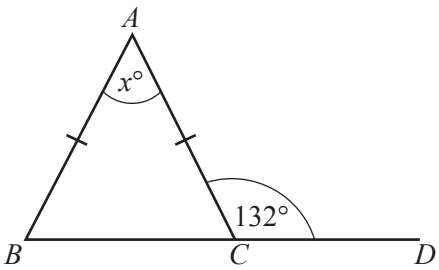

NOT TO SCALE

The diagram shows an isosceles triangle, *ABC*.
BCD is a straight line.

Find the value of x.

x = ... [2]

0580_w18_qp_32_Q5

(e) The diagram shows a hollow metal pipe in the shape of a cylinder.

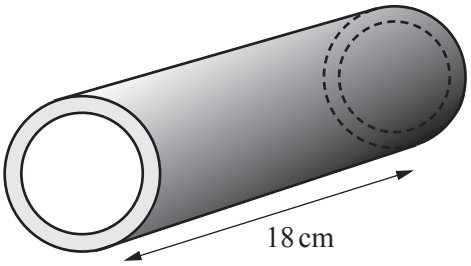

NOT TO SCALE

(i) This diagram shows the cross-section of the pipe.

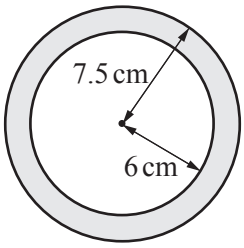

NOT TO SCALE

Work out the shaded area.

.....cm^2 [3]

(ii) The cylinder is 18 cm long.

Work out the volume of the metal.

.....cm^3 [1]

(iii) Work out the curved surface area of the outside of the pipe.

.....cm^2 [3]