0580_m19_qp_32_Q1

1 **(a)** 60 boys are asked to name their favourite sport.
The results are shown in the pie chart.

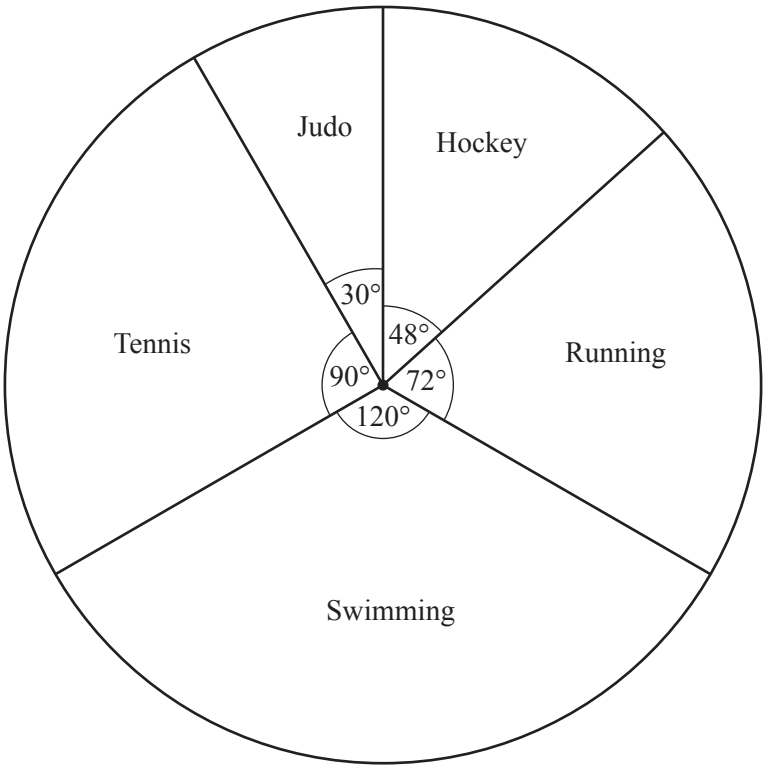

(i) Write down the most popular sport.

..... [1]

(ii) Write down the fraction of boys who choose Running.

..... [1]

(iii) Work out how many boys choose Judo.

..... [2]

(iv) One of the boys is chosen at random.

Work out the probability that his favourite sport is **not** Judo.

..... [1]

(v) Complete this statement.

Three times as many boys choose ..... than choose ..... [1]

(b) Two of the boys in **part (a)** then change their choice from Running to Swimming.

Complete the pie chart after this change.
The Tennis, Judo and Hockey sectors have been drawn for you.



[2]

(c) 60 girls are asked to name their favourite sport.
Their results are shown in the bar chart below.

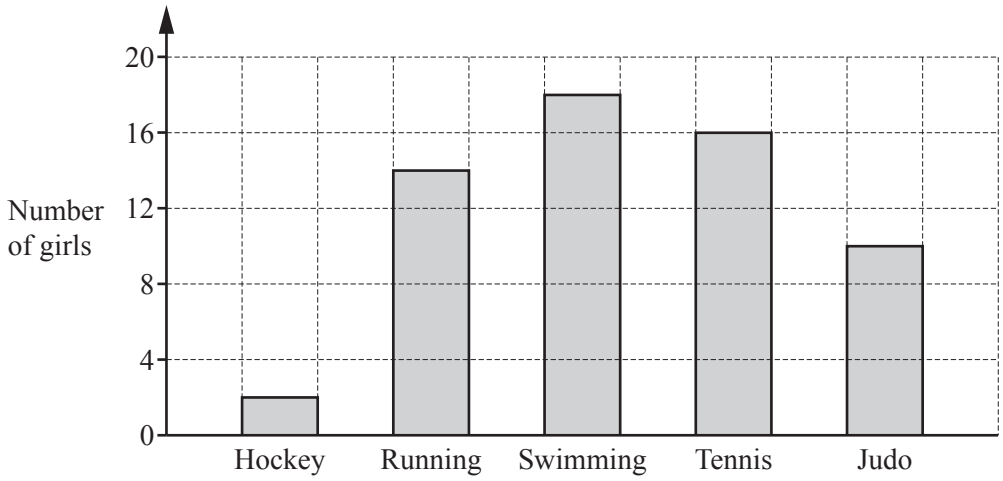

Using your pie chart in **part (b)** and the bar chart above, write down one similarity and one difference between the girls' results and the boys' results.

Similarity .....

Difference ..... [2]