10 **(a)** **Using a straight edge and compasses only**, construct the equilateral triangle *ABC*.
The base *AB* has been drawn for you.

[2]

(b)

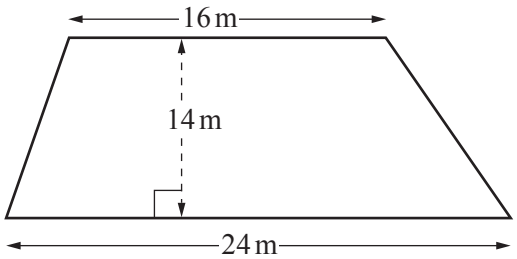

NOT TO SCALE

Calculate the area of this trapezium.

..... m^2 [2]

(c) Each interior angle of a regular polygon is 162°.

Calculate the number of sides of the polygon.

..... [3]

0580_m19_qp_32_Q10

(d)

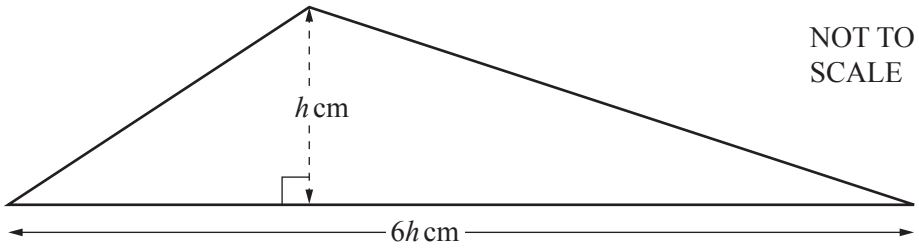

The area of this triangle is 363 cm^2.

Calculate the value of h.

$h =$ ..... [3]

(e)

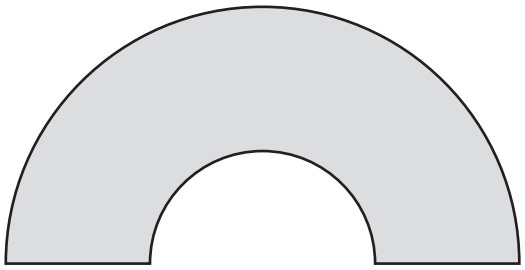

This shape is drawn using two semicircles that have the same centre.
The large semicircle has radius 7 cm.
The small semicircle has radius 3 cm.

Calculate the area of the shape.

..... cm^2 [3]