0580_s19_qp_31_Q4

4 **(a)**

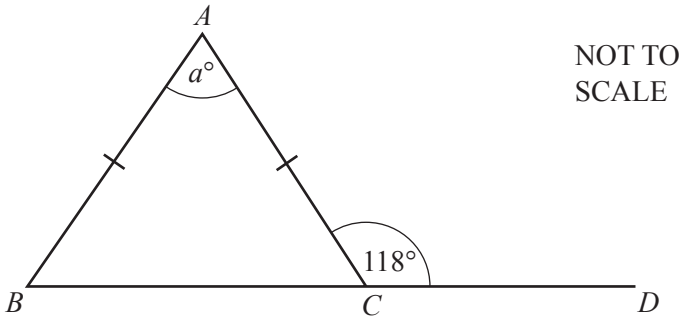

NOT TO SCALE

ABC is an isosceles triangle.
BCD is a straight line.

Find the value of *a*.

a = ... [2]

(b) Find the size of one interior angle of a regular 10-sided polygon.

..... [3]

(c)

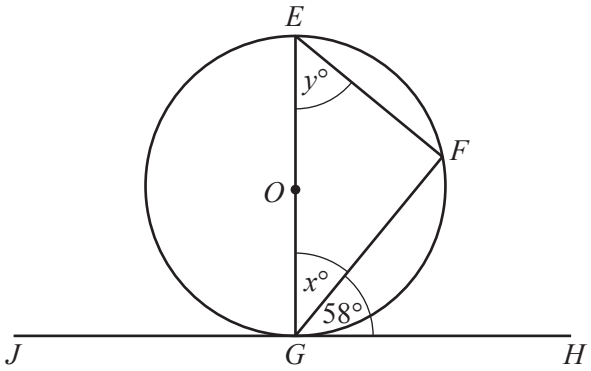

NOT TO SCALE

The points *E*, *F* and *G* lie on the circumference of a circle, centre *O*.
JGH is a tangent to the circle.

Find the value of *x* and the value of *y*.

x = ...

y = ... [2]

0580_s19_qp_31_Q4

(d)

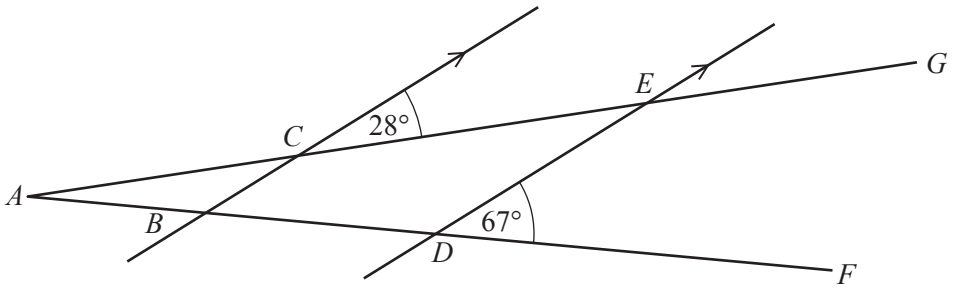

NOT TO SCALE

In the diagram *AG* and *AF* are straight lines.
Lines *BC* and *DE* are parallel.

Find angle *CED* and give a reason for your answer.

Angle *CED* = ... because ..... [2]

(e)

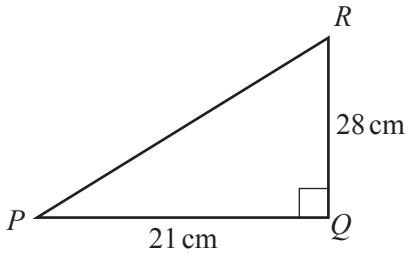

NOT TO SCALE

Calculate *PR*.

PR = ... cm [2]