0580_s19_qp_32_Q7

7 **(a)** A triangle is isosceles.
One of its angles is 96°.

Find the other two angles.

..... and ..... [1]

(b)

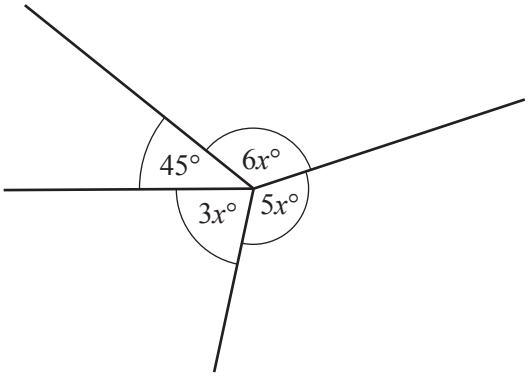

NOT TO SCALE

Find the value of x.

x = ... [4]

(c) Work out the size of one interior angle of a regular polygon with 20 sides.

..... [3]

(d)

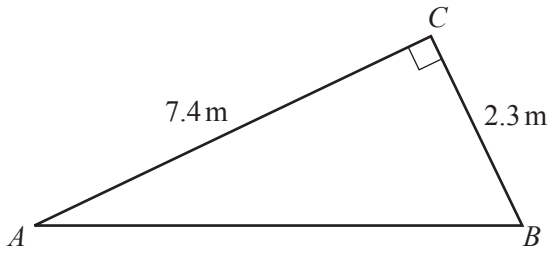

NOT TO SCALE

The diagram shows a right-angled triangle *ABC*.

Calculate the length of *AB*.

AB = ... m [2]

(e) The diagram shows the vertices of a triangle lying on the circumference of a circle with centre *O*.

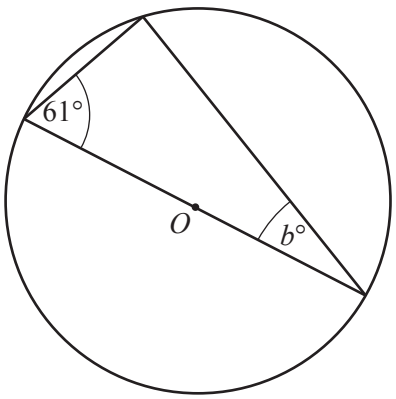

NOT TO SCALE

Find the value of *b*.
Give a reason for your answer.

b = ... because ..... [2]