0580_w19_qp_31_Q3

3 **(a)**

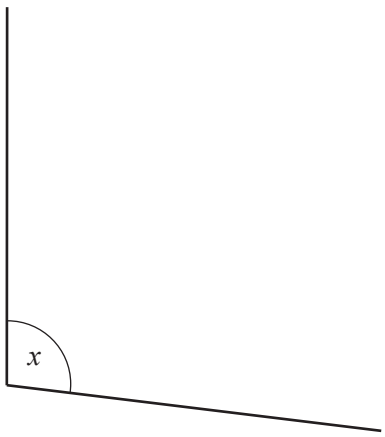

(i) Measure the size of angle x.

..... [1]

(ii) Write down the mathematical name of this type of angle.

..... [1]

(b) ABC is a straight line.

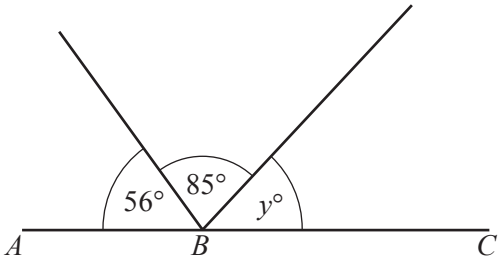

NOT TO SCALE

Find the value of y.

y = ... [1]

0580_w19_qp_31_Q3

(c) *QRS* is an isosceles triangle and *PQR* is a straight line.

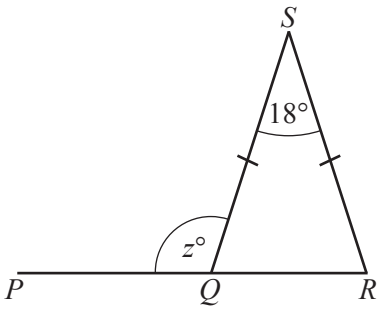

NOT TO SCALE

Find the value of z.

$z =$ ..... [2]

(d) Find the size of one interior angle of a regular octagon.

..... [3]