0580_w19_qp_41_Q1

1 **(a)**

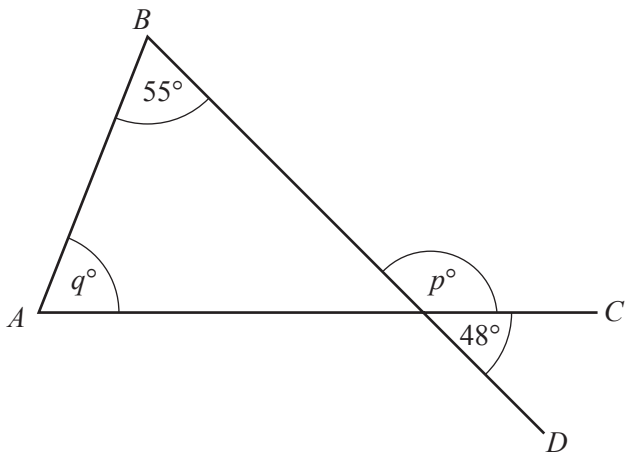

NOT TO SCALE

In the diagram, AC and BD are straight lines.

Find the value of p and the value of q.

$p =$ .....

$q =$ ..... [3]

(b) The angles of a quadrilateral are $x°$, $(x+5)°$, $(2x-25)°$ and $(x+10)°$.

Find the value of x.

$x =$ ..... [3]

(c) A regular polygon has 72 sides.

Find the size of an interior angle.

..... [3]

(d)

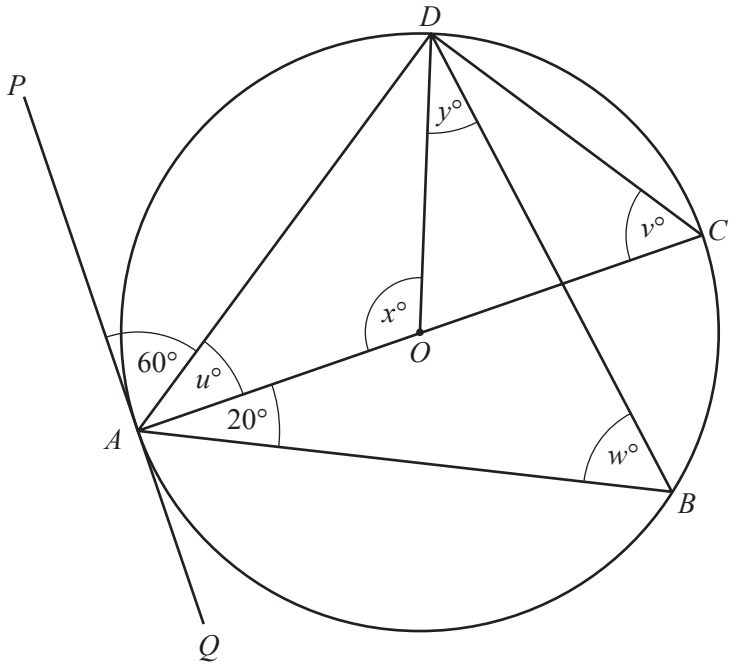

NOT TO SCALE

A, B, C and D lie on the circle, centre O, with diameter AC.
PQ is a tangent to the circle at A.
Angle $PAD = 60°$ and angle $BAC = 20°$.

Find the values of u, v, w, x and y.

$u =$ ....., $v =$ ....., $w =$ ....., $x =$ ....., $y =$ ..... [6]

(e) A, B and C lie on the circle, centre O.
Angle $AOC = (3x + 22)°$ and angle $ABC = 5x°$.

Find the value of x.

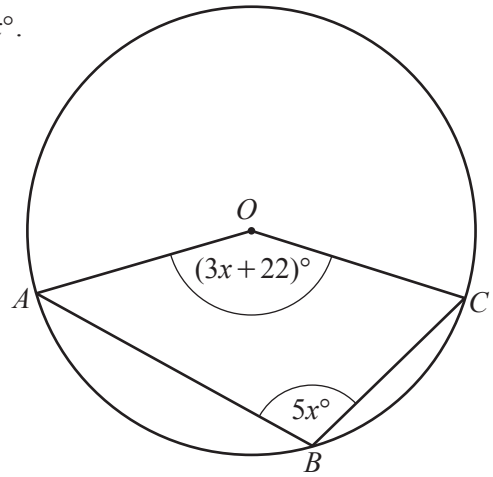

NOT TO SCALE

$x =$ ..... [4]