0580_s20_qp_23_Q19

19 **(a)** In a class of 40 students:

- 28 wear glasses (G)
- 13 have driving lessons (D)
- 4 do not wear glasses and do not have driving lessons.

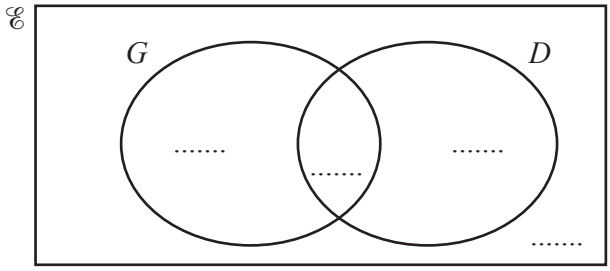

(i) Complete the Venn diagram. [2]

(ii) Use set notation to describe the region that contains a total of 32 students.

..... [1]

(b) This Venn diagram shows information about the number of students who play basketball (B), football (F) and hockey (H).

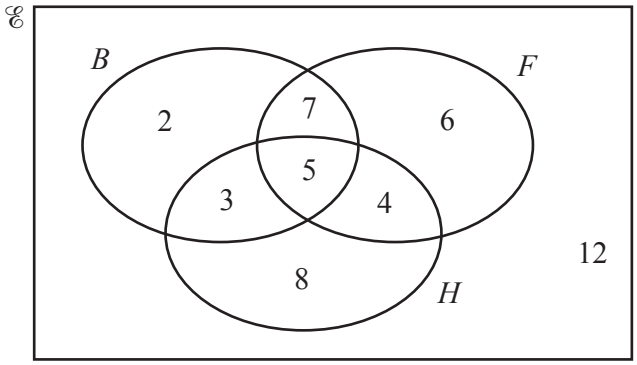

Find $n((B \cup F) \cap H')$.

..... [1]

(c)

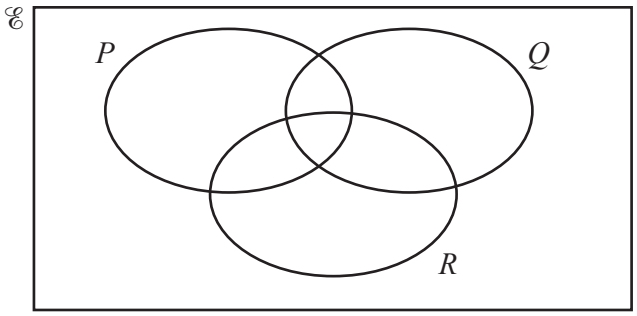

Shade the region $P \cup (Q \cap R)'$. [1]