0580_s20_qp_32_Q7

7 **(a)**

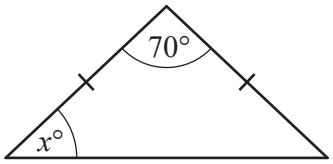

NOT TO SCALE

The diagram shows an isosceles triangle.

Find the value of x.

$x =$ ..... [2]

(b)

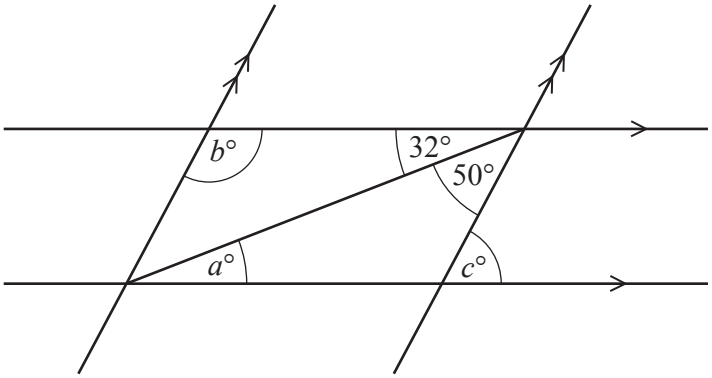

NOT TO SCALE

The diagram shows two pairs of parallel lines.

Find the value of a, the value of b and the value of c.

$a =$ .....

$b =$ .....

$c =$ ..... [3]

0580_s20_qp_32_Q7

(c)

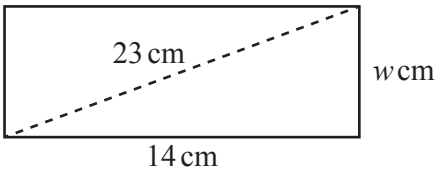

NOT TO SCALE

The diagram shows a rectangle 14 cm by w cm.
The diagonal is 23 cm.

Calculate the value of w.

w = ... [3]

(d)

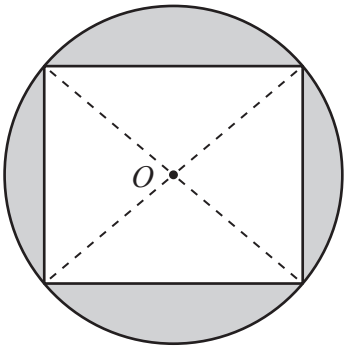

NOT TO SCALE

The diagram shows a square with vertices on the circumference of a circle, centre O.
The radius of the circle is 6 cm.

Work out the shaded area.

..... cm^2 [5]