0580_w20_qp_31_Q7

7 (a)

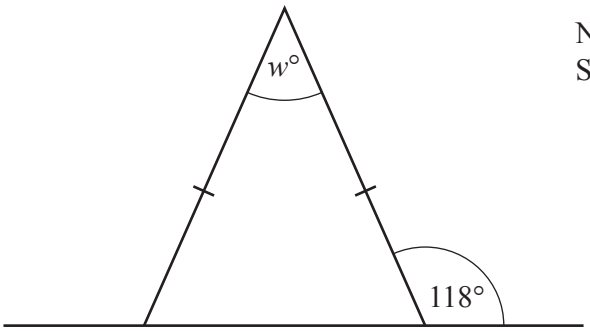

NOT TO SCALE

The diagram shows an isosceles triangle and a straight line.

Work out the value of w.

w = ... [2]

(b)

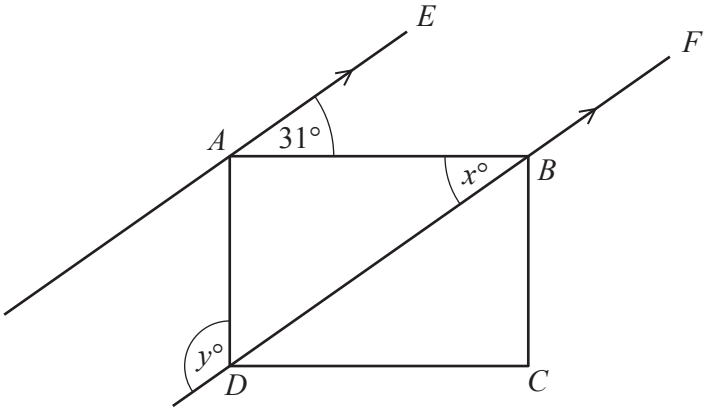

NOT TO SCALE

$ABCD$ is a rectangle.
AE is parallel to DBF.

Find the value of x and the value of y.

x = ...

y = ... [2]

0580_w20_qp_31_Q7

(c)

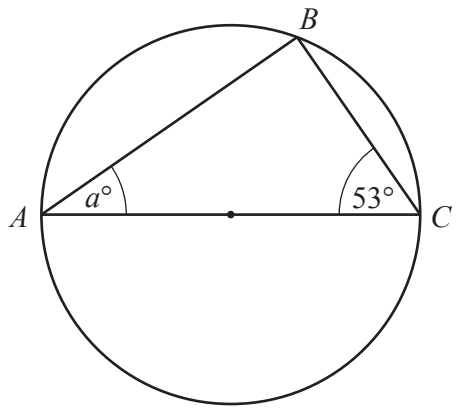

NOT TO SCALE

A, B and C are points on a circle.
AC is a diameter of the circle.

Find the value of a.

a = ... [2]

(d)

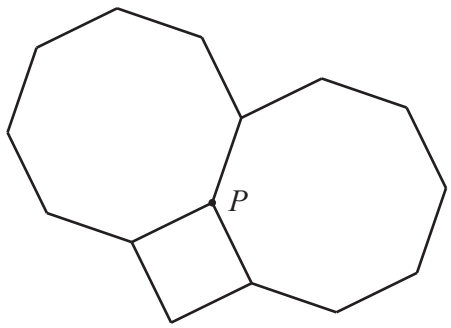

NOT TO SCALE

Two regular octagons and a square meet at point P.

Show, by calculation, that the three interior angles at P add up to 360°.

[3]