2 **(a)**

Measure the length of this line in millimetres.

..... mm [1]

(b)

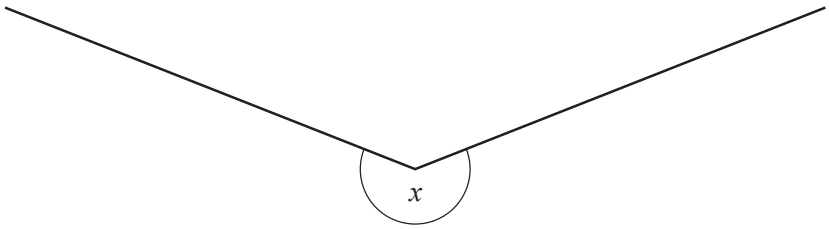

(i) Measure the size of angle x.

..... [1]

(ii) Write down the mathematical name of this type of angle.

..... [1]

(c)

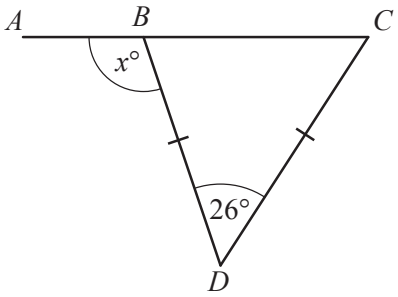

NOT TO SCALE

ABC is a straight line and BCD is an isosceles triangle.

Find the value of x.

$x =$ ..... [2]

(d) Work out the size of one interior angle of a regular 16-sided polygon.

..... [2]

0580_w20_qp_32_Q2

(e)

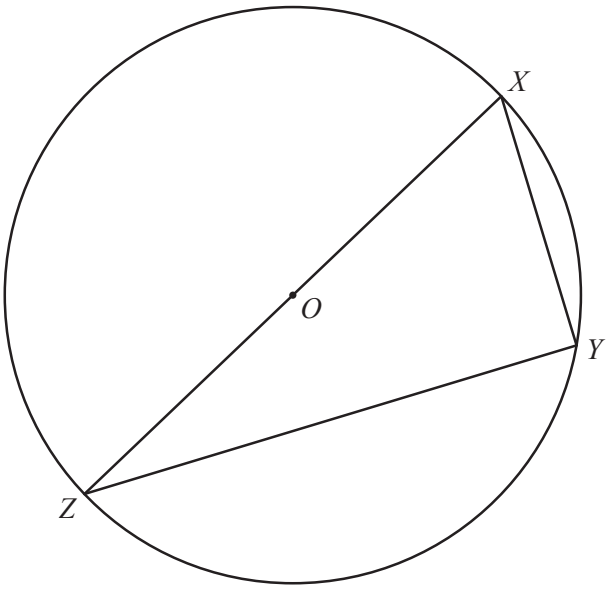

NOT TO SCALE

(i) Complete this statement.

X, *Y* and *Z* are points on the ..... of the circle, centre *O*. [1]

(ii) Give a reason why angle *XYZ* is 90°.

..... [1]

(f) A circle has diameter 6 cm.

Calculate the area of the circle.
Give the units of your answer.

.... [3]