**0580_w20_qp_32_Q3**

**3** **(a)** Write down the mathematical name for this

**(i)** quadrilateral,

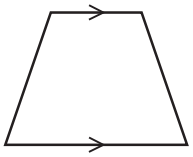

..... [1]

**(ii)** solid.

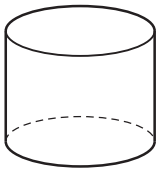

..... [1]

**(b)** The area of a square is 64 $cm^2$.

Work out the length of one side of the square.

..... cm [1]

**(c)** The length, $l$, of a rectangle is 3 cm longer than the width, $w$.
The perimeter of the rectangle is 26 cm.

Calculate the length, $l$, and the width, $w$.

$l$ = ..... cm

$w$ = ..... cm [3]

**0580_w20_qp_32_Q3**

**(d)** A cuboid measures 6 cm by 3 cm by 1 cm.

**(i)** On the 1 $cm^2$ grid, draw an accurate net of this cuboid.
One face has been drawn for you.

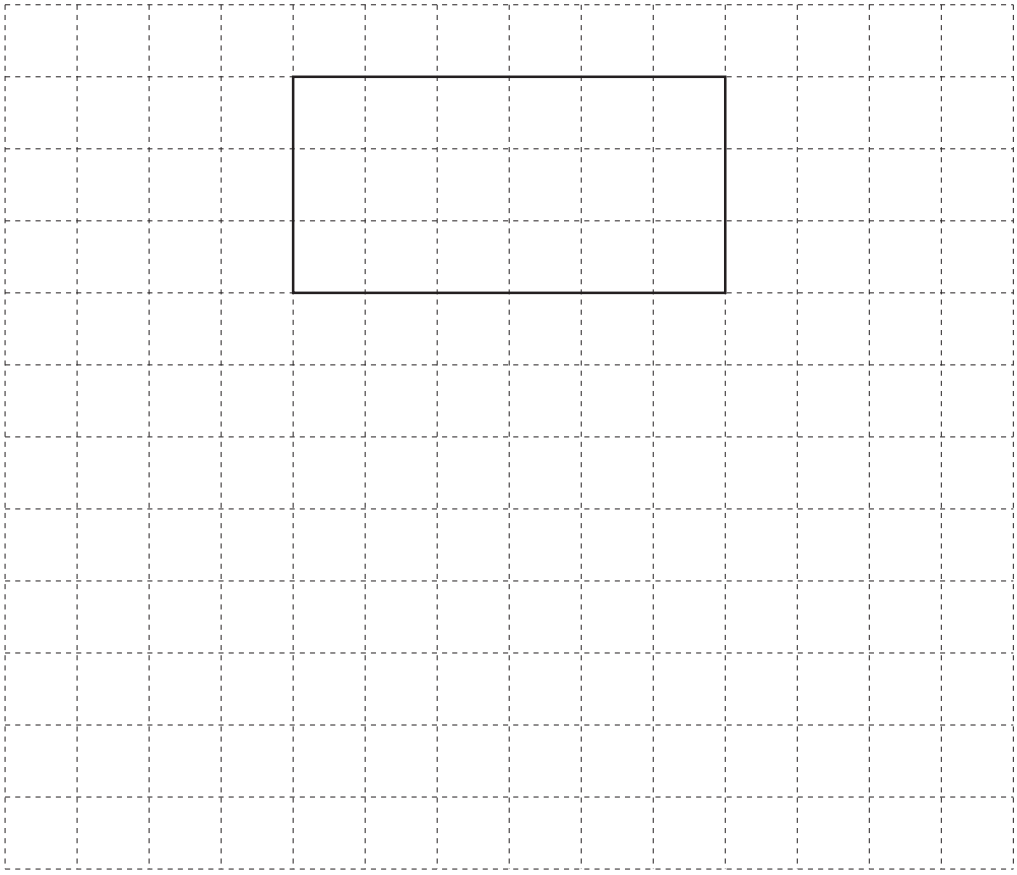

[3]

**(ii)** Calculate the surface area of the cuboid.

..... $cm^2$ [2]