0580_m21_qp_32_Q9

9 **(a)**

On the 1cm^2 grid, draw **one** rectangle that has

- a perimeter of 22 cm

and

- an area of 24cm^2. [2]

(b)

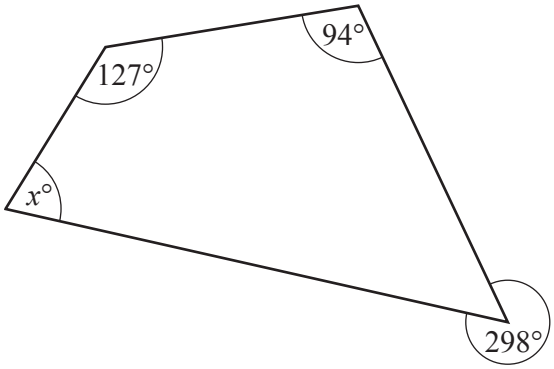

NOT TO SCALE

Work out the value of x.
Write down the two geometrical properties needed to find x.

1 .....

2 .....

$x =$ ..... [4]

(c)

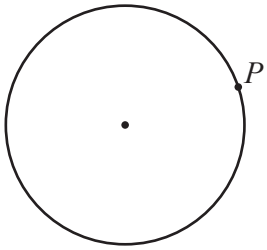

Draw a tangent to the circle at point P. [1]

(d) The exterior angle of a regular polygon is 24°.

Work out the number of sides of this polygon.

..... [1]

(e)

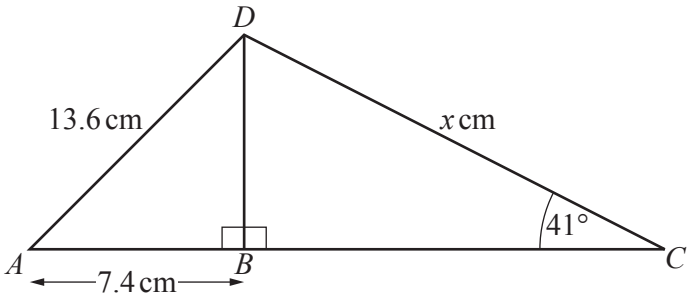

NOT TO SCALE

Calculate the value of x.

$x =$ ..... [5]