0580_m21_qp_42_Q3

3 (a)

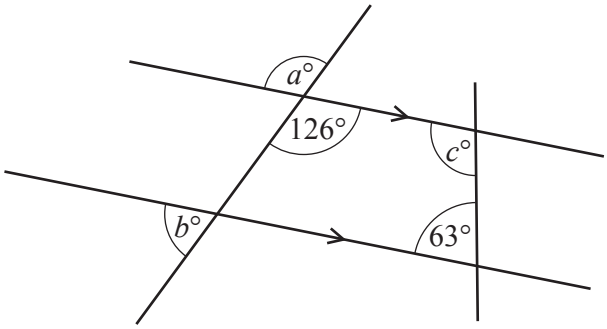

NOT TO SCALE

The diagram shows two straight lines intersecting two parallel lines.

Find the values of a, b and c.

$a =$ .....

$b =$ .....

$c =$ ..... [3]

(b)

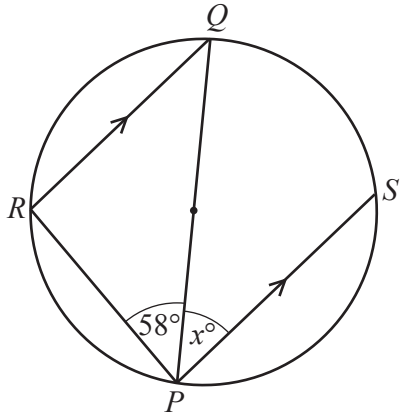

NOT TO SCALE

Points R and S lie on a circle with diameter PQ.
RQ is parallel to PS.
Angle $RPQ = 58°$.

Find the value of x, giving a geometrical reason for each stage of your working.

.....

.....

.....

$x =$ ..... [3]

0580_m21_qp_42_Q3

(c)

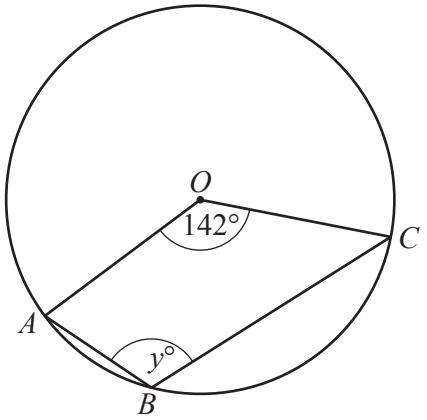

NOT TO SCALE

Points A, B and C lie on a circle, centre O.
Angle $AOC = 142°$.

Find the value of y.

$y =$ ..... [2]