0580_m21_qp_42_Q7

7 **(a)** The box-and-whisker plot shows information about the marks scored by some students in a test.

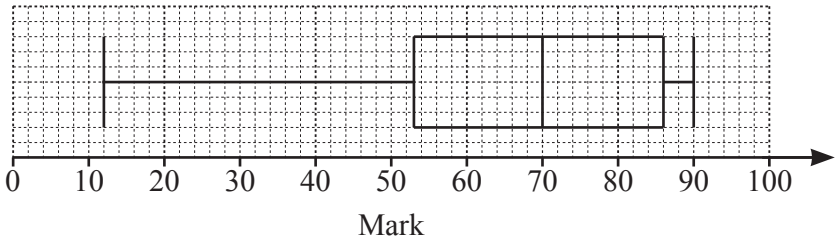

(i) Write down the median mark. ..... [1]

(ii) Work out the range.

..... [1]

(iii) Jais scored a mark in the test that was higher than the marks scored by 75% of the students.

Write down a possible mark for Jais. ..... [1]

(iv) This box-and-whisker plot shows information about the marks scored by the same students in a second test.

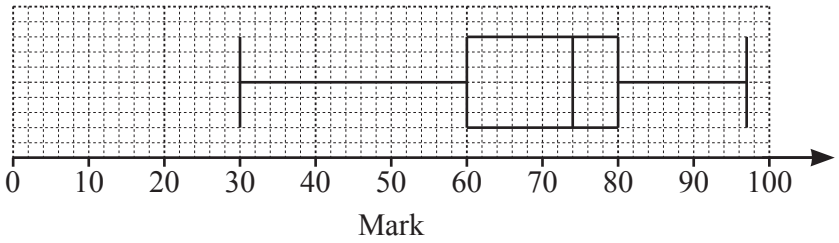

Make one comparison between the distributions of marks in the two tests.

.....

..... [1]

(b) The table shows information about the height, h cm, of each of 50 plants.

Height (h cm)	$0 < h \leqslant 20$	$20 < h \leqslant 30$	$30 < h \leqslant 34$	$34 < h \leqslant 40$	$40 < h \leqslant 60$
Frequency	4	9	20	15	2

Calculate an estimate of the mean.

..... cm [4]

0580_m21_qp_42_Q7

(c) Some apples are weighed and the mass, m grams, of each apple is recorded.
The table shows the results.

Mass (m grams)	$100 < m \leqslant 110$	$110 < m \leqslant 115$	$115 < m \leqslant 125$	$125 < m \leqslant 140$
Frequency	50	x	44	51

The histogram shows some of the information from the table.

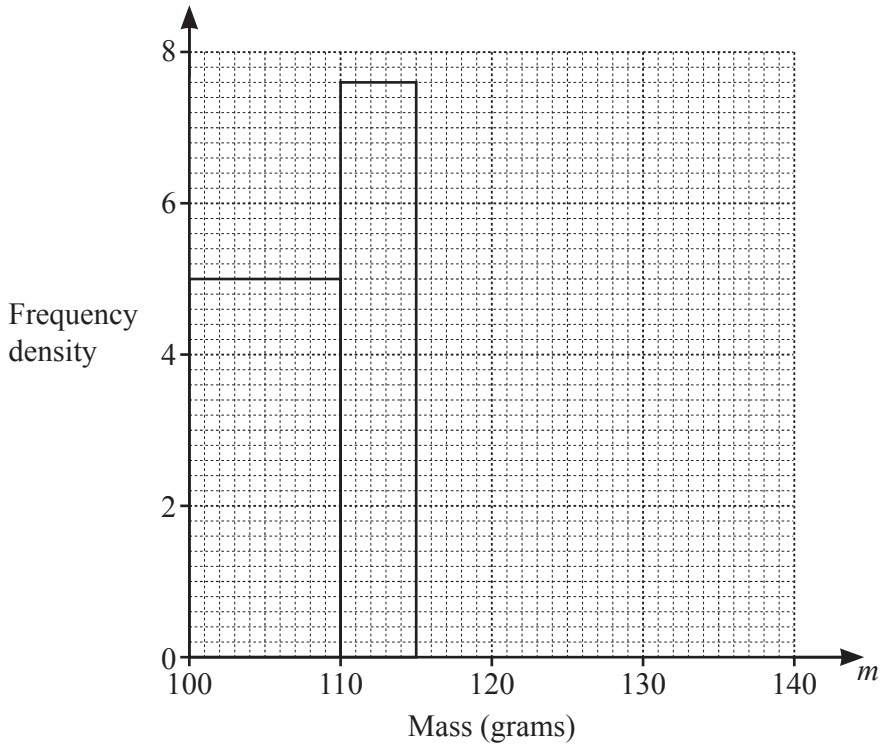

(i) Work out the value of x.

$x =$ ..... [1]

(ii) Complete the histogram.

[2]