0580_s21_qp_33_Q3

3 **(a)** The diagram shows a scale drawing of Joel's rectangular garden.
The scale is 1 centimetre represents 8 metres.



Scale: 1 cm to 8 m

Find the actual area of his garden.

..... m^2 [3]

(b) The diagram shows a rectangular gate, *FGHJ*, in Joel's garden.

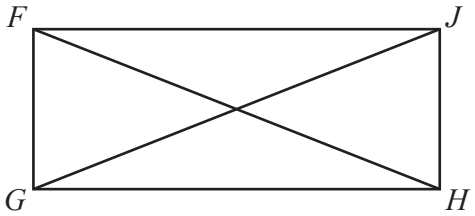

NOT TO SCALE

$GJ = 2.1$ m and $FG = 0.85$ m.

Find *FJ*.

FJ = ... m [3]

0580_s21_qp_33_Q3

(c)

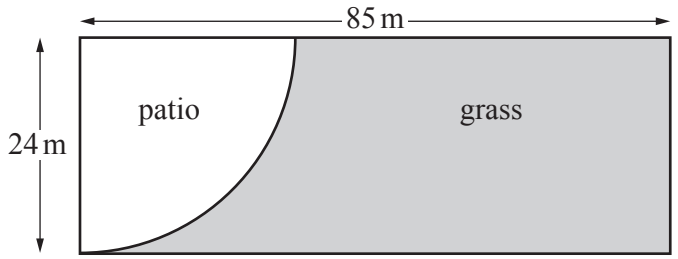

NOT TO SCALE

The diagram shows Brenda's rectangular garden.
There is a patio in the shape of a quarter-circle.

She wants to grow grass in the shaded part of the garden.
She needs 40 g of grass seed per square metre.
Grass seed is sold in 1 kg bags which cost \$6.80 per bag.

Calculate the cost of the grass seed she needs to buy.

\$ ..... [6]