0580_s21_qp_41_Q8

8 **(a)** The table shows information about the mass, in kilograms, of each of 50 children.

Mass (k kg)	$0 < k \leqslant 10$	$10 < k \leqslant 25$	$25 < k \leqslant 35$	$35 < k \leqslant 40$	$40 < k \leqslant 50$
Frequency	3	19	21	5	2

(i) Complete the cumulative frequency table.

Mass (k kg)	$k \leqslant 10$	$k \leqslant 25$	$k \leqslant 35$	$k \leqslant 40$	$k \leqslant 50$
Cumulative frequency					

[2]

(ii) On the grid, draw a cumulative frequency diagram to show this information.

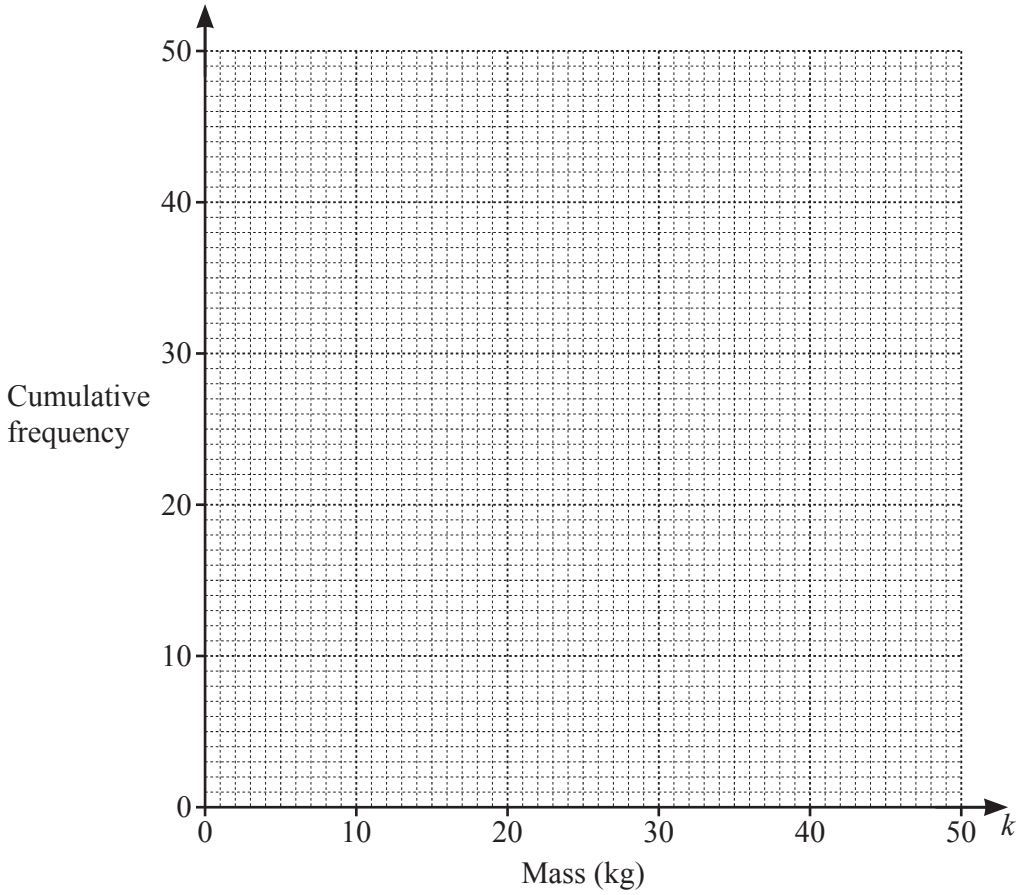

[3]

(iii) Use your diagram to find an estimate of the number of children with a mass of 32 kg or less.

..... [1]

0580_s21_qp_41_Q8

(b) This cumulative frequency diagram shows information about the height, in metres, of each of 100 students.

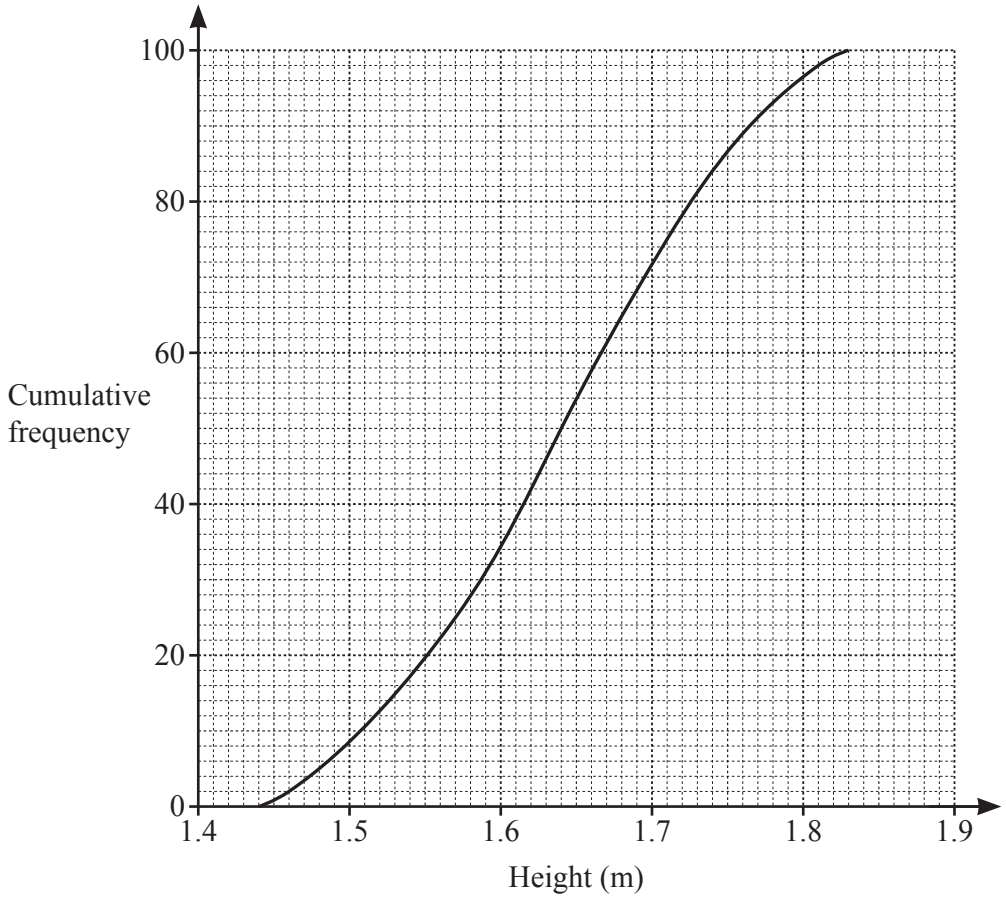

The height of the tallest student is 1.83 metres.
The height of the shortest student is 1.45 metres.

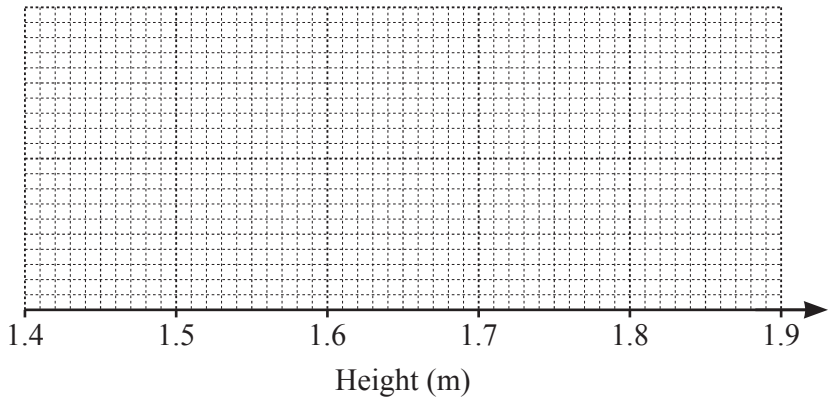

On this grid, draw a box-and-whisker plot for the heights of the 100 students. [4]