0580_w21_qp_32_Q4

4 (a)

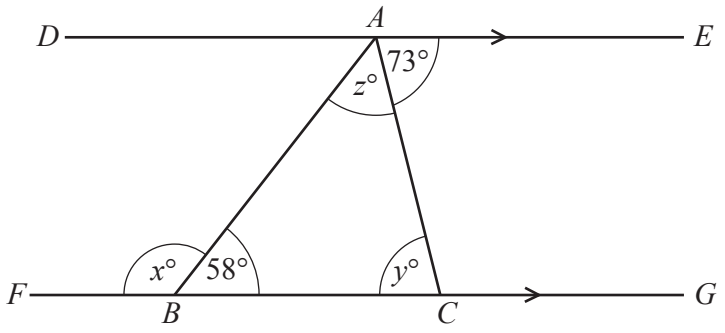

NOT TO SCALE

In the diagram, *ABC* is a triangle.
Line *DAE* is parallel to line *FBCG*.

Find the value of x, the value of y and the value of z.

$x =$ .....

$y =$ .....

$z =$ ..... [3]

(b)

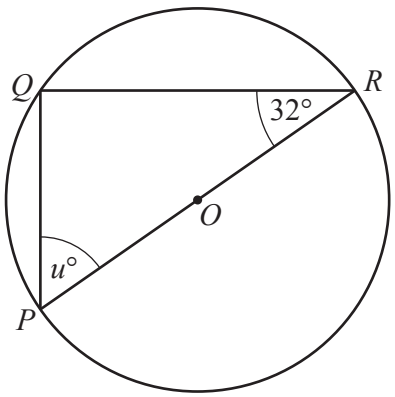

NOT TO SCALE

Points *P*, *Q* and *R* lie on a circle, centre *O*.

Find the value of u.

$u =$ ..... [2]

0580_w21_qp_32_Q4

(c)

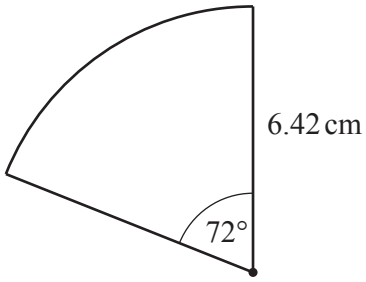

NOT TO SCALE

The diagram shows a sector of a circle with radius 6.42 cm and sector angle 72°.

Calculate the perimeter of this sector.

..... cm [3]