0580_w21_qp_32_Q7

7 (a)

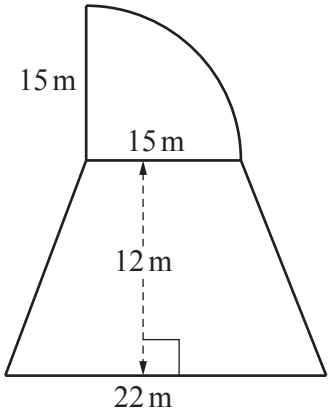

NOT TO SCALE

The diagram shows a shape made from a quarter circle and a trapezium.

Find the total area of this shape.

..... m^2 [4]

(b)

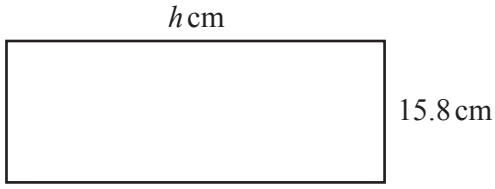

NOT TO SCALE

The diagram shows a rectangle.
The area of the rectangle is $387.1\,cm^2$.

Find the value of h.

$h =$ ..... [2]

0580_w21_qp_32_Q7

(c)

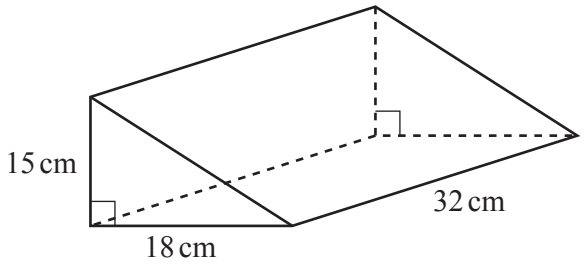

NOT TO SCALE

The diagram shows a right-angled triangular prism.

Find the volume of the prism.

..... cm^3 [3]