0580_w21_qp_33_Q4

4 **(a)**

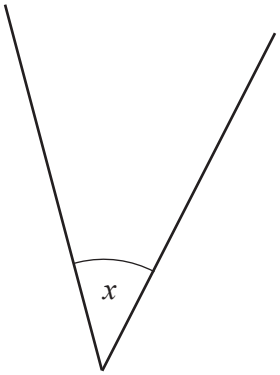

(i) Measure the size of angle x.

Angle x = ... [1]

(ii) Write down the mathematical name of this type of angle.

..... [1]

(b)

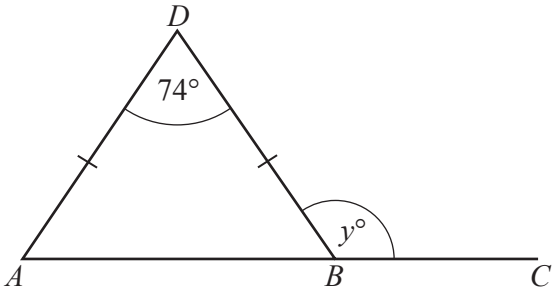

NOT TO SCALE

ABC is a straight line and ABD is an isosceles triangle.

Find the value of y.

y = ... [3]

0580_w21_qp_33_Q4

(c)

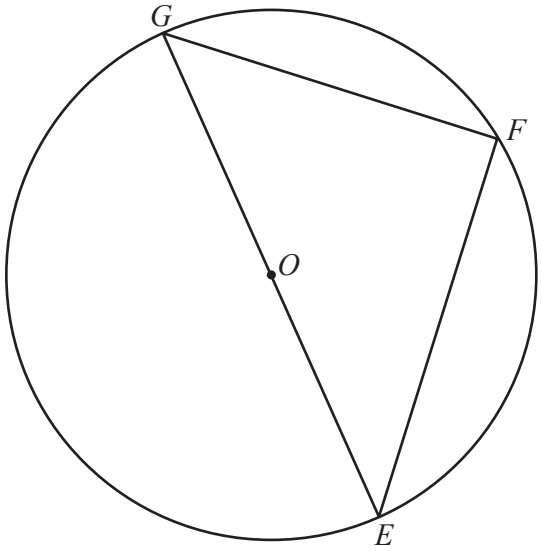

NOT TO SCALE

E, F and G are points on the circle, centre O.
$EG = 12$ cm.

(i) Write down the mathematical name for the line FG.

..... [1]

(ii) Explain why angle EFG is 90°.

..... [1]

(iii) Calculate the area of the circle.

..... cm^2 [2]