0580_w21_qp_41_Q9

9 **(a)**

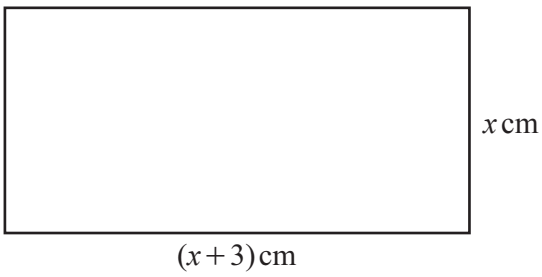

NOT TO SCALE

This rectangle has perimeter 20 cm.

Find the value of x.

$x =$ ..... [3]

(b)

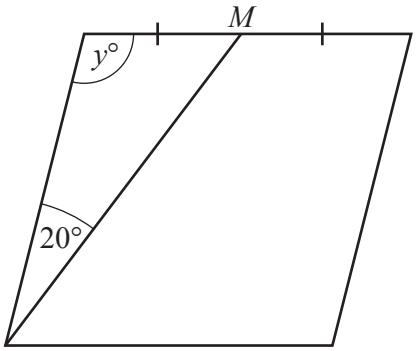

NOT TO SCALE

This rhombus has perimeter 20 cm and angle y is obtuse.
M is the midpoint of one of the sides.

Find the value of y.

$y =$ ..... [5]

0580_w21_qp_41_Q9

(c)

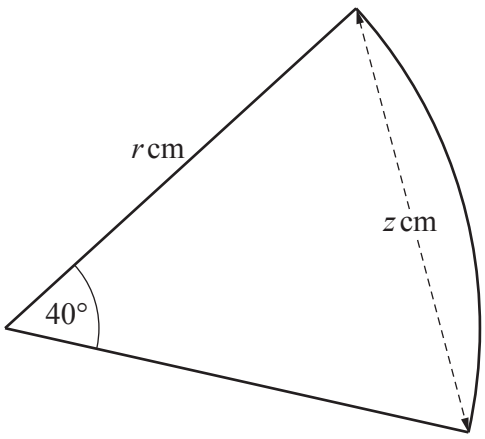

NOT TO SCALE

This sector of a circle has radius r and perimeter 20 cm.

Find the value of z.

$z =$ ..... [6]