0580_w22_qp_32_Q2

2 **(a)**

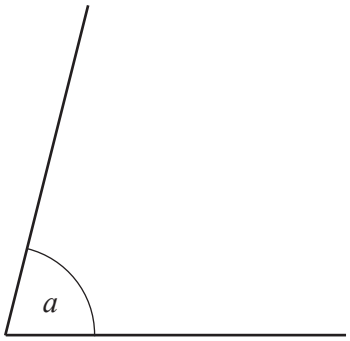

(i) Measure the size of angle *a*.

..... [1]

(ii) Write down the mathematical name of this type of angle.

..... [1]

(b) The scale drawing shows the positions of town *B* and town *C*.
The scale is 1 cm represents 8 km.

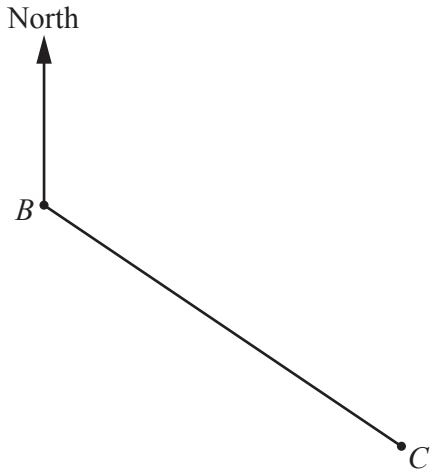

Scale: 1 cm to 8 km

(i) Work out the actual distance between town *B* and town *C*.

..... km [2]

(ii) Measure the bearing of town *C* from town *B*.

..... [1]

(c)

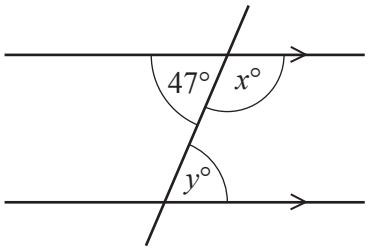

NOT TO SCALE

The diagram shows two parallel lines and a straight line crossing them.

Find the value of x and the value of y.

$x =$ .....

$y =$ ..... [2]

(d) A triangle has angles 119°, 31° and d°.

Explain why this triangle is scalene.
You must show your working.

.....

..... [2]

(e) Find the size of one interior angle of a regular 15-sided polygon.

..... [2]

(f) One of the angles in a parallelogram is 64°.

Find the other three angles in this parallelogram.

..... , ... , ... [3]