0580_w23_qp_31_Q10

10 (a)

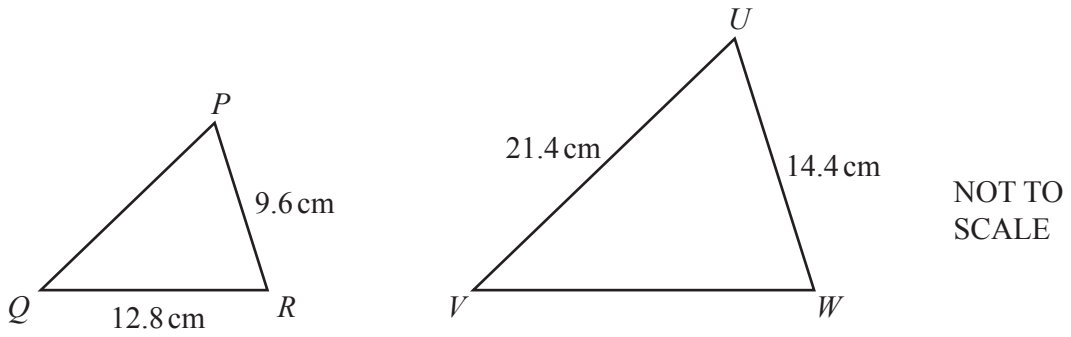

Triangle *PQR* is mathematically similar to triangle *UVW*.

Calculate *VW*.

VW = ... cm [2]

(b) *ABC* is a right-angled triangle.

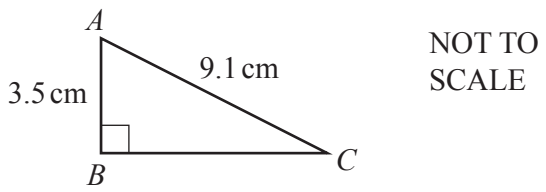

Calculate *BC*.

BC = ... cm [3]

0580_w23_qp_31_Q10

(c) *DEF* is a right-angled triangle.

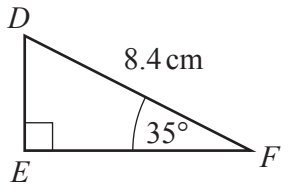

NOT TO SCALE

Calculate *EF*.

EF = ...cm [2]

(d) *JKL* is a right-angled triangle.

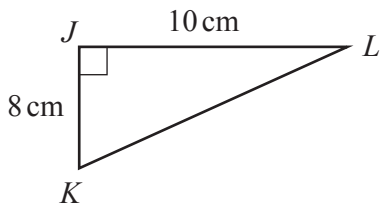

NOT TO SCALE

Calculate angle *JKL*.

Angle *JKL* = ... [2]