**0580_w23_qp_32_Q7**

**7** Elize, Lily and Marco start a business.

**(a)** Elize invests \$5000.
Lily invests \$8000.
Marco invests \$3000.

After one year they make a profit of \$40 000.
They share this profit in the ratio of their investments.

Work out how much they each receive.

Elize \$ .....

Lily \$ .....

Marco \$ ..... [3]

**(b)** **(i)** Lily buys 20 rolls of ribbon.
8 are red, 6 are blue, 4 are yellow and 2 are pink.
A roll of ribbon is chosen at random.

On the probability scale, draw an arrow (↓) to show the probability that this roll is

**(a)** yellow

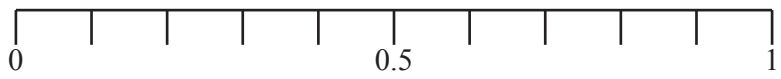


[1]

**(b)** not red

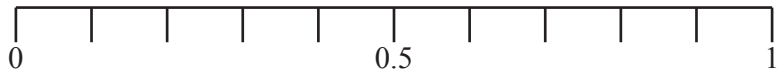


[1]

**(c)** green.

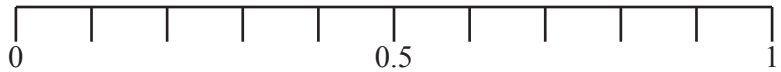


[1]

**(ii)** The length, $l$ m, of a roll of ribbon is 120 m, correct to the nearest metre.

Complete this statement about the value of $l$.

..... $\leqslant l <$ ..... [2]

**(c)** Elize buys some picture frames.
The frames cost \$5.80 each in New York and 4.50 euros each in Paris.
The exchange rate is 1 euro = \$1.37 .

Calculate the difference in the cost in euros.
Give your answer correct to 2 decimal places.

..... euros [3]

**(d)** Elize buys a framed picture.

**(i)**

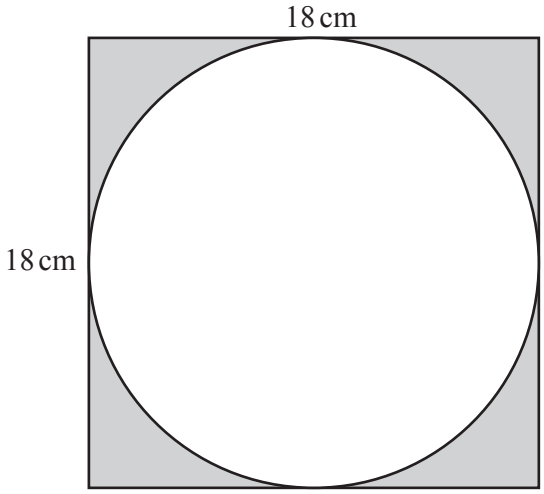


NOT TO SCALE

The picture is a circle with diameter 18 cm.
The frame is a square of side length 18 cm.

Calculate the shaded area.

..... $cm^2$ [3]

**(ii)** Elize buys the framed picture for \$12.50 .
She sells the framed picture for \$20.25 .

Calculate the percentage profit.

..... % [2]