0580_m24_qp_32_Q1

1 **(a)**

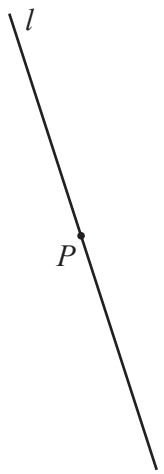

Draw a line through point P that is perpendicular to line l. [1]

(b) Write down the mathematical names for two different quadrilaterals with

- two lines of symmetry

and

- rotational symmetry of order two.

..... and ..... [2]

(c) The diagram shows a quadrilateral on a 1 cm^2 grid.

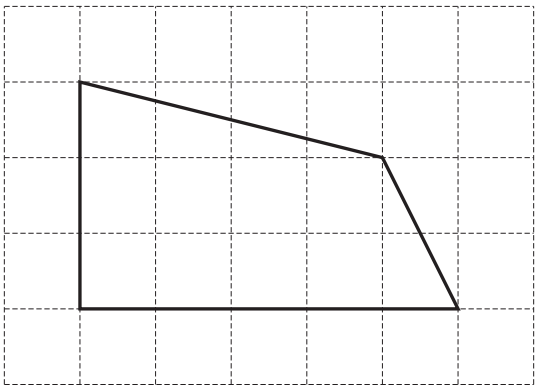

Find the area of this quadrilateral.

..... cm^2 [1]

0580_m24_qp_32_Q1

(d)

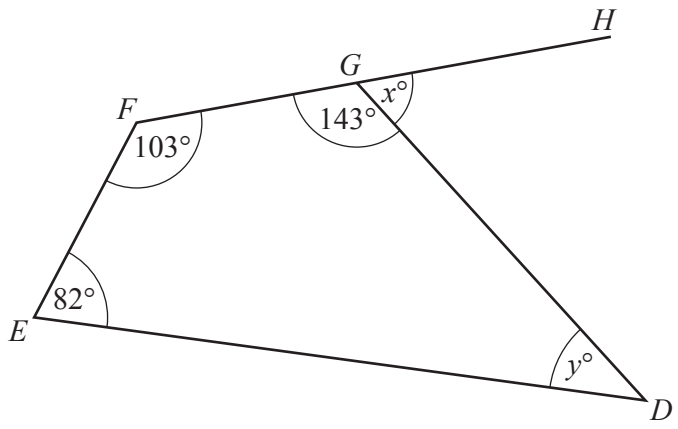

NOT TO SCALE

The diagram shows a quadrilateral *DEFG* and a straight line *FGH*.

(i) Angle $DEF = 82°$.

Write down the mathematical name for this type of angle.

..... [1]

(ii) Work out the value of x.
Give a geometrical reason for your answer.

$x =$ ..... because .....

..... [2]

(iii) Work out the value of y.
Give a geometrical reason for your answer.

$y =$ ..... because .....

..... [2]