2 **(a)**

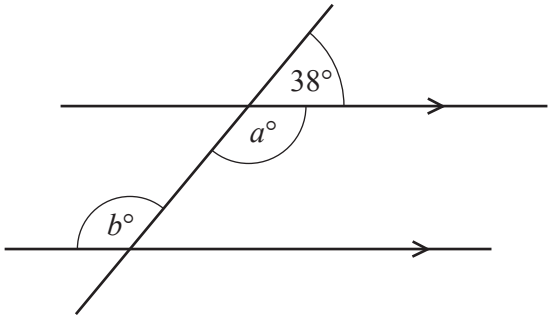

NOT TO SCALE

The diagram shows a straight line intersecting two parallel lines.

Find the value of a and the value of b.

$a =$ .....

$b =$ ..... [2]

(b) Calculate the interior angle of a regular 12-sided polygon.

..... [2]

(c)

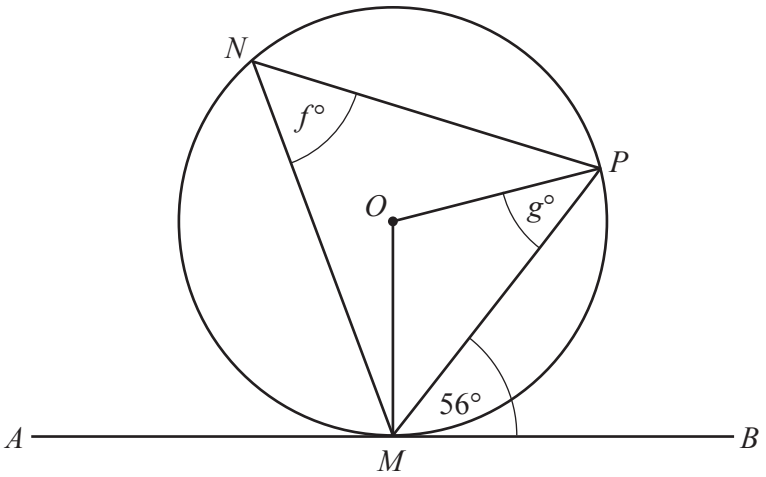

NOT TO SCALE

The diagram shows a circle, centre O.
The points M, N and P lie on the circumference of the circle.
AMB is a tangent to the circle at M.

Find the value of f and the value of g.

$f =$ .....

$g =$ ..... [3]

(d)

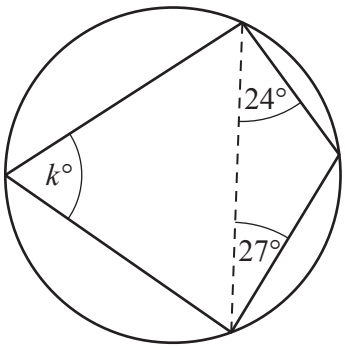

NOT TO SCALE

The diagram shows a cyclic quadrilateral.

Find the value of k.

$k =$ ..... [2]